485. Average age of class increases by 1 year when 12-year-old is replaced. There are 20 students. What is new student's age?

A) 30 B) 31 C) 32 D) 33

(486- 490) Direction: Read the table carefully and answer the following questions. The table shows the data on the number of cameras sold by 4 different brands in 4 different years.

Companies	2017	2018	2019	2020
Sony	2000	2500	1800	2200
Canon	1800	1600	2000	2500
Nikon	1500	1800	2000	2500
Fujifilm	1200	1000	1400	1200

486. The number of cameras sold by Nikon in all the years is how much percent more/less of the number of cameras sold of all brands in 2017?

a.20% b.15% c.30% d.25%

487. What is the difference between the number of cameras sold by Sony in 2017, 2018 and 2019 and the number of cameras sold by Fujifilm in 2018, 2019 and 2020?

a.2900 b.3300 c.2200 d.2700

488. What is the ratio of the number of cameras sold of Canon in 2017, 2018 and 2020 to the number of cameras sold of all brands in 2019?

a.29 : 36 b.59:72 c.23:31 d.77: 91

489. The number of cameras sold of Canon in 2018 and 2020 is what percent more/less than the number of cameras sold of Nikon in 2017 and 2020?

a.2.5% b.4% c.1% d.3.66%

490. What is the average number of cameras sold of Fujifilm in all the years?

a.1230 b.1180 c.1200 d.1195

(491 – 495)Direction: Read the table carefully and answer the following

questions. The table shows the stock bought and sold of 4 different items by 2 merchants. (all stocks in packets)

	Anthony		Akbar	
	Bought	Sold	Bought	Sold
Maggi	500	400	600	500
Pasta	300	200	200	150
Macroni	400	250	300	100
Noodles	500	450	500	400

491. What is the average stock unsold of all items by Akbar?

a.112.5 b.125 c.100 d.117.75

492. The stock unsold of Maggi by both merchants is what percent more/less than the stock sold of Noodles by Akbar?

a.100% b.0% c.50% d.200%

493. What is the ratio of the stocks sold of Maggi and Pasta by Akbar to the stocks sold of Noodles and Macroni by Anthony?

a.2:3 b.8:13 c.64:65 d.13:14

494. What is the difference between the stock unsold of Noodles and Macroni by Akbar and that of by Anthony?

a.200 b.50 c.150 d.100

495. The stock bought of Maggi and Pasta by Anthony is what percent of the stock bought of that of by Akbar?

a.90% b.100% c.110% d.105%

(496 – 500) Direction: Study the given table carefully and answer the following questions accordingly.

Given table shows the number of teachers in five different age groups in Delhi University and the ratio of male teachers and female teachers in the respective age groups:

Age Group	Number of teaches	Ratio of male to female
25 - 30	760	13 : 6
30 - 35	840	4 : 3
35 - 40	750	7 : 8
40 - 45	800	9 : 11
45 - 50	700	23 : 12

496. What is the total number of male teachers in all the age groups together?

a.2480 b.2350 c.2170 d.2260

497. 3/11 of the total number of teachers in all age groups together went on strike on a particular day. Then, find the number of teachers who do not joined the strike?

a.2800 b.1950 c.3240 d.2210

498. What is the respective ratio of female teachers in age groups 40 - 45 and 45 - 50 together to the number of male teachers in same age groups together?

a.41: 34 b.34:41 c.35:56 d.17:41

499. By what percent is the number of male teachers in age groups 25- 30 and 30-35 together more than that of female teachers in age groups 30-35 and 40 - 45 together?

a.20% b.25% c.30% d.15%

500. What is the average number of female teachers in age groups 25- 45?

a.340 b.400 c.320 d.360

(501 – 505) Direction: Read the following graph carefully and answer the questions that follow:

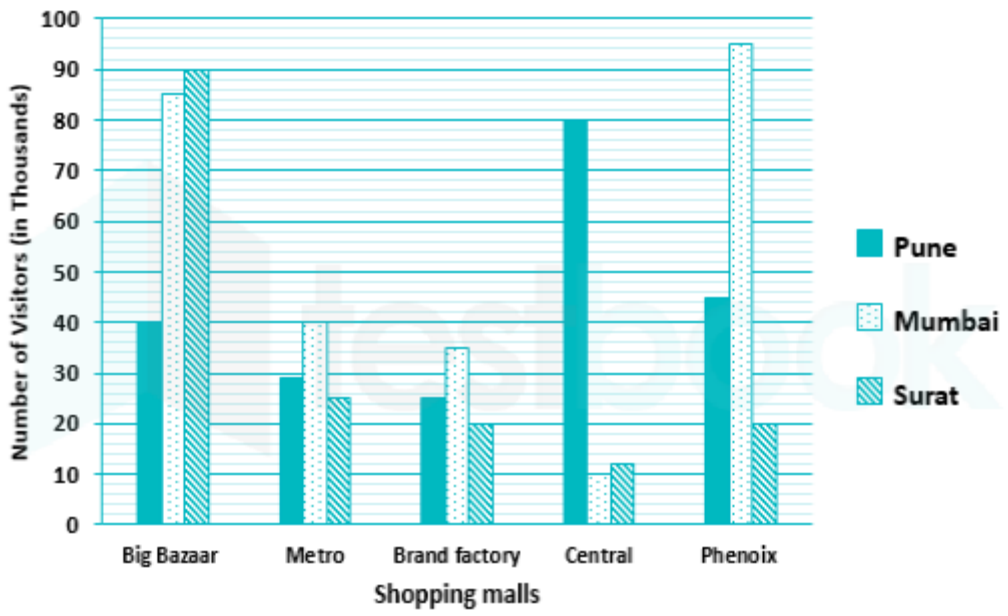

501. What percent is the number of visitors at Big Bazaar of total visitors to five malls in Surat?

a.58% b.52% c.57% d.54%

502. What percent less is the number of visitors to Brand Factory than the number of Visitors to Central mall in three cities?

a.28% b.29% c.22% d.25%

503. What is the difference between the number of visitors of Mumbai and Pune of five shopping malls?

a.41000 b.42600 c.48500 d.46000

504. What will be the ratio between the number of visitors to Phoenix and Metro in three cities?

a.40:47 b.80:47 c.47: 80 d.47:40

505. What is the average number of visitors in three cities to the shopping mall?

a.217 thousand b.254 thousand c.220 thousand d.234 thousand

(506 – 510) Direction: Go through the passage and bar graph given below and answer the questions based on it. The bar graph given below shows the data of import and export of a country in the last five months.

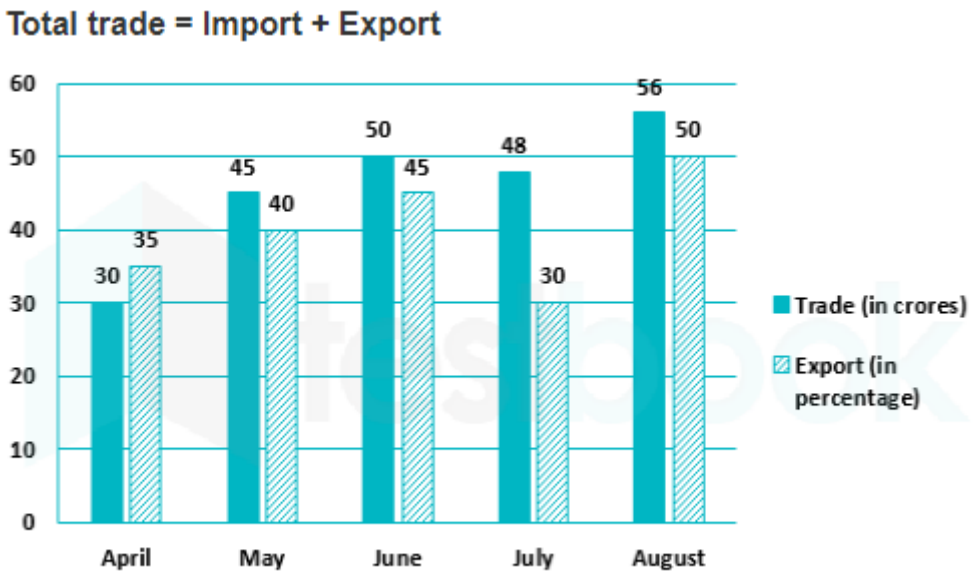

506. Which of the following order is correct for the revenue from import in given months?

a.April < May < June <August < July

b.April < June < May < August < July

c.April > May > July > August > June

d.April > May > June > August > July

507. If government impose 28% tax on the import then in which month the tax collection by government is maximum?

a.April b.May c.July d.June

508. What is the ratio of the difference between import and export in June to the difference between import and export in April?

a.9:5 b.5:9 c.4:9 d.9:4

509. In which of the following months the revenue from export is more than the previous months?

a.May, June

b.June and August

c.May and August

d.May and June and August

510. Total export in five months is approximate what percent of total trade?

a.35% b.41% c.45% d.50%

(511 – 515) Direction: Study the following information carefully to answer the given questions:

The given bar-graph represents the number of pets comprising of Dogs and Cats adopted by five different Animal shelter homes in Delhi in the year 2020.

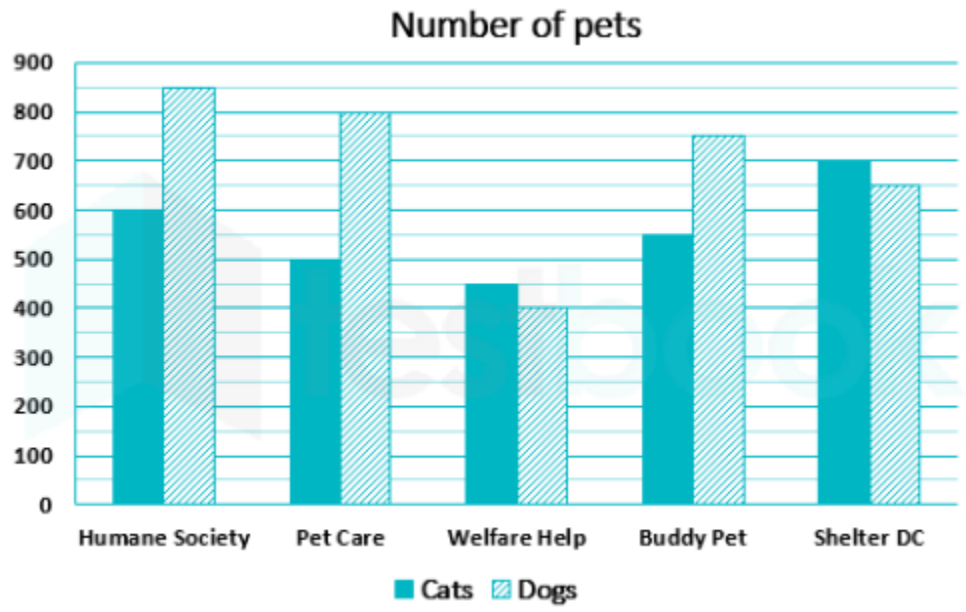

511. What is the total number of dogs adopted by the animal shelters Buddy Pet, Pet Care, and the number of Cats adopted by the animal shelter Welfare Help altogether in 2020?

a.2500 b.2000 c.3000 d.3500

512. The number of total animals adopted by animal shelter Humane society and Shelter DC decreased by 40% and 60% respectively from 2020 to 2021. What was the total number of animals adopted by animal shelter Humane society and Shelter DC together in 2021?

a.1400 b.1540 c.1080 d.1410

513. The number of Dogs adopted by Welfare Help is what percent less than the number of Cats adopted by Shelter DC (approximate value)?

a.42.85% b.28.57% c.57.14% d.14.28%

514. Find the ratio of the number of Dogs adopted by all five Shelters to that of Cats adopted by all five Shelters.

a.66:59 b.56: 69 c.69:56 d.59:66

515. Find the difference between the total number of dogs adopted by the animal shelters Humane Society and Shelter DC and the number of Cats adopted by the animal shelter Buddy Pet and Pet Care.

a.400 b.300 c.200 d.None of these

516. The average of 10 numbers is 12. What is the sum of these numbers?

a) 120 b) 110 c) 100 d) 130

517. The average expenditure of Sharma for January to June is Rs. 4200 and he spent Rs. 1200 in January and Rs.1500 in July. The average expenditure for the months of February to July is:

a) 4250 b) 4500 c) 3500 d) 2750

518. Find the weight of the teacher if the average weight of a class of 24 students is 36 kgs. When the weight of the teacher is also included, the average weight increases by 1kg.

a) 61 kg b) 55 kg c) 75 kg d) 50 kg

519. Find the average of all prime numbers between 30 and 50

a) 32.7 b) 35.4 c) 37.6 d)39.8

520. A man bought 5 shirts at Rs. 450 each, 4 trousers at Rs. 750 each and 12 pairs of shoes at Rs. 750 each. What is the average expenditure per article?

a) Rs. 678.57 b) Rs. 764.65 c) Rs. 876.94 d) Rs. 453.98

521. The average age of A, B and C is 26 years. If the average age of A and C is 29 years, what is the age of B in a year?

a) 17 b) 19 c) 21 d) 20

522. A cricketer played 80 innings and scored an average of 99 runs. His score in the last inning was zero run. To have an average of 100 at the end, his score in the last innings should have been

a) 60 runs b) 80 runs c) 10 runs d) 1 run

523. A man spends an average of Rs. 1,694.70 per month for the first 7 months and Rs.1,810.50 per month for the next 5 months. His monthly salary if he saves Rs. 3,084.60 during the whole year is

a) Rs. 1,000 b) Rs. 3,000 c) Rs. 2,400 d) Rs. 2,000

524. The average monthly salary of 12 workers and 3 managers in a factory was Rs. 600. When one of the managers whose salary was Rs. 720, was replaced with a new manager, then the average salary of the team went down to 580. What is the salary of the new manager?

a) Rs 420 b) Rs 415 c) Rs 315 d) Rs 475

525. The average temperature on Wednesday, Thursday and Friday was 25^0. The average temperature on Thursday, Friday and Saturday was 24^0. If the temperature on Saturday was 27^0, what was the temperature on Wednesday?

a) 35° b) 31° c) 30° d) 34°

526. The average of 9 consecutive even numbers is 30. The smallest of these numbers is:

a. 24 b. 23 c. 20 d. 22

527. Find the average of 3/4, 5/8, 7/12, 15/16.

a. 11/32 b. 139/192 c. 21/64 d. 135/64

528. The average of five number is 27. If a number is removed from set of five numbers, then average is increased by 1. Find the removed number.

a. 23 b. 25 c. 12 d. 18

529. The mean of a set of 12 numbers is 24. If one item is excluded, the mean gets reduced by 3. What is the excluded number?

a. 45 b. 62 c. 57 d. 55

530. A cricketer has an average of 56 after playing 22 innings. How many runs should he score in the next inning so as the new average is 54?

a. 8 b. 10 c. 12 d. 5

531. The average weight of Dev and Shreya is 70 kgs. If the weight of Shreya is decreased by 2 kg, her weight will be half of that of the weight of Dev.

Find the weight of Dev.

a. 85 kg b. 88 kg c. 98 kg d. 92 kg

532. The sum of the ages of 4 children born at the intervals of 4 years is 48. Find the age of the youngest child.

A. 4 years B. 5 years C. 6 years D. 7 years

533. The mean of 25 values was 40. But one value was written as 25 instead of 50. The corrected mean is

A. 39 B. 41 C. 40 D. 42

534. If the average of five numbers is -20 and sum of three of the numbers is 32, then what is the average of other two numbers?

a. -66 b. -33 c. -34 d. -132

535. A gift box has 10 bangles. The average weight of the first 4 bangles is 61 gms and the average weight of the remaining 6 bangles is 62 gms. Tell the average weight of all bangles (in grams)

a. 61.6 b. 61.5 c. 61.7 d. 61.4

536. Average weight of boys of a class is 48 kg while the average weight of girls of the class is 36 kg. If ratio of boys and girls in the class is 3: 5, then what will be the average weight of all the students of the class?

a. 40.5 kg b. 48 kg c. 32.5 kg d. 42.5 kg

537. A class of 45 students whose average weight is 40kg. If the weight of the teacher is also included the average weight of the class is increased by 2.5%. Find the weight of the teacher.

a. 76 kg b. 80 kg c. 82 kg d. 86 kg

538. The average weight of three friends A, B and C is 46 kg. Another person D joins the group and now the average weight is 45 kg. If another person E whose weight is 6 kg more than D joins the group replacing A, then the average weight of B, C, D and E becomes 47 kg. What is the weight of A (in kg)?

a. 32 kg b. 40 kg c. 35 kg d. 30 kg

539. The average score in English of 75 students of section X and Y was 60. The number of students in X is 50% more than that in Y. and the average score of students in Y is 50% more than that of students in X. What is the average score of students in X?

a. 45 b. 48 c. 50 d. 52

540. In a class with a certain number of students if a teacher weighing 78 kg is added, then average weight of class is increased by 2 kg. If one more teacher weighing 66 kg is added, then the average weight of the class increased by 3.5 kg over the original average. What is the original weight (in kg) of the class?

a. 480 kg b. 525 kg c. 415 kg d. 200 kg

541. When 2 is subtracted from each of n numbers, then sum of the number so obtained is 116. When 5 is subtracted from each of n numbers, then the sum of the numbers so obtained is 20. What is the average of the given n numbers?

a. 4 (3/4) b. 4 (1/4) c. 5 (5/8) d. 5 (3/8)

542. The mean score of 3 students in a test out of 25 is 18. Two new students take the test. What is the lowest marks that can be obtained by one newcomer who scores less than the other one for the overall average of the five students to rise to 20?

a. 22 b. 21 c. 23 d. 20

543. Samar was given some money to take care of his travel during an 8-day sales drive he had to undertake. However he had to increase his stay by another 6 days and as a result his average daily travel allowance went down by Rs. 120. What was the amount that was sanctioned to him in the beginning?

a. Rs. 560 b. Rs. 2240 c. Rs. 1120 d. Rs. 840

544. The mean of the 6 smallest numbers from a group is 15 while the mean of all the 14 members of the group taken together is 17. What is the mean of the 8 largest numbers?

a. 18.25 b. 17.25 c. 18.75 d. 18.50

545. The average age of 4 persons is 42 years. If their ages are in the ratio of 1:3:4:6 respectively, find out the difference between the ages of the eldest and the youngest person.

a. 61 years b. 60 years c. 59 years d. 70 years

546. The average weight of a group of students is 54 kg. If 12 students with an average weight of 52 kg leave and 8 students with an average weight of 60 kg join, the average weight of the group increases by 0.5 kg. Find the original number of students in the group.

A. 148 B. 152 C. 40 D. 44

547. In a sequence of 11 consecutive integers, the average of the first 7 integers is k. What is the average of all 11 integers?

A. k+1 B. k+2 C. k+3 D. 2k-1

548. The average temperature of Monday, Tuesday, and Wednesday was 37°C and that of Tuesday, Wednesday, and Thursday was 34°C. If the temperature of Thursday was 4/5th that of Monday, what was the temperature of Thursday?

A. 34°C B. 36°C C. 38°C D. 40°C

549. A batsman has a certain average of runs for 12 innings. In the 13th inning, he scores 96 runs thereby increasing his average by 5 runs. What is his average after the 13th inning?

A. 31 B. 61 C. 36 D. 41

550. The average age of 30 students in a class is 15 years. If the teacher's age is included, the average increases by 1 year. If the teacher's wife's age (who is 5 years younger than the teacher) is also included, what is the new average of the class?

A. 16.2 B. 16.5 C. 16.8 D. 17.1

551. There were 42 students in a hostel. Due to the admission of 13 new students, the expenses of the mess increased by ₹31 per day while the average expenditure per head diminished by ₹3. What was the original expenditure of the mess?

A. ₹633.23 B. ₹840 C. ₹1050 D. ₹1260

552. The average age of a husband and a wife was 23 years at the time of their marriage 5 years ago. The average age of the husband, the wife, and a child born during the interval is 20 years now. How old is the child?

A. 2 years B. 4 years C. 3 years D. 1 year

553. The average of 10 numbers is calculated as 15. It is discovered later that while calculating the average, one number 36 was wrongly read as 26. The correct average is:

A. 14 B. 16 C. 15.5 D. 16.5

554. In a exam, the average marks obtained by John in English, Math, Hindi, and Drawing were 50. His marks in Math, Hindi, Drawing, and Social Science were 54. If his marks in Social Science were 71, what were his marks in English?

A. 45 B. 60 C. 55 D. 50

555. A library has an average of 510 visitors on Sundays and 240 on other days. The average number of visitors per day in a month of 30 days beginning with a Sunday is:

A. 275 B. 280 C. 285 D. 300

556. Of the three numbers, the first is twice the second and the second is twice the third. The average of the reciprocal of the numbers is 7/72. The numbers are:

A. 16, 8, 4 B. 20, 10, 5 C. 24, 12, 6 D. 36, 18, 9

557. The average weight of 8 persons increases by 2.5 kg when a new person comes in place of one of them weighing 65 kg. What is the weight of the new person?

A. 75 kg B. 80 kg C. 85 kg D. 90 kg

558. The average of five numbers is 27. If one number is excluded, the average becomes 25. The excluded number is:

A. 35 B. 45 C. 25 D. 30

559. The average age of 8 men is increased by 2 years when two of them whose ages are 21 years and 23 years are replaced by two new men. The average age of the two new men is:

A. 22 years B. 28 years C. 30 years D. 32 years

560. A car owner buys petrol at ₹7.50, ₹8.00, and ₹8.50 per liter for three successive years. What approximately is the average cost per liter of petrol if he spends ₹4000 each year?

A. ₹7.90 B. ₹7.98 C. ₹8.00 D. ₹8.10

561. The average of 5 consecutive odd numbers is 61. What is the difference between the highest and lowest numbers?

A. 4 B. 8 C. 12 D. 16

562. Three years ago, the average age of a family of 5 members was 17 years. A baby having been born, the average age of the family is the same today. The present age of the baby is:

A. 1 year B. 1.5 years C. 2 years D. 3 years

563. The average salary of all the workers in a workshop is ₹8000. The average salary of 7 technicians is ₹12000 and the average salary of the rest is ₹6000. The total number of workers in the workshop is:

A. 20 B. 21 C. 22 D. 23

564. A grocer has a sale of ₹6435, ₹6927, ₹6855, ₹7230, and ₹6562 for 5 consecutive months. How much sale must he have in the sixth month so that he gets an average sale of ₹6500?

A. ₹4991 B. ₹5991 C. ₹6001 D. ₹6991

565. The average age of 36 students in a group is 14 years. When teacher's age is included to it, the average increases by one. What is the teacher's age in years?

A. 31 B. 36 C. 51 D. 50

566. The average of 20 numbers is zero. Of them, at the most, how many may be greater than zero?

A. 0 B. 1 C. 10 D. 19

567. A batsman makes a score of 87 runs in the 17th inning and thus increases his average by 3. Find his average after 17th inning.

A. 36 B. 39 C. 42 D. 45

568. The average of six numbers is x and the average of three of these is y. If the average of the remaining three is z, then:

A. $x = y + z$ B. $2x = y + z$ C. $x = 2y + 2z$ D. $y = z$

569. The average of 11 results is 50. If the average of first six results is 49 and that of last six is 52, the sixth result is:

A. 54 B. 55 C. 56 D. 57

570. The average of marks obtained by 120 candidates was 35. If the average marks of passed candidates was 39 and that of failed candidates was 15, what is the number of candidates who passed the examination?

A. 100 B. 110 C. 120 D. 150

571. 10 years ago, the average age of a family of 4 members was 24 years. Two children having been born (with age difference of 2 years), the present average age of the family is the same. The age of the youngest child is:

A. 1 year B. 2 years C. 3 years D. 5 years

572. A man travels from A to B at 20 kmph and comes back from B to A at 30 kmph. What is his average speed for the entire journey?

A. 25 kmph B. 24 kmph C. 26 kmph D. 22 kmph

573. The average of 7 numbers is 5. When a 8th number is added, the average becomes 10. The 8th number is:

A. 35 B. 40 C. 45 D. 50

574. The average weight of A, B and C is 45 kg. If the average weight of A and B be 40 kg and that of B and C be 43 kg, then the weight of B is:

A. 17 kg B. 20 kg C. 26 kg D. 31 kg

575. In a class of 60 students, 40% are girls. The average weight of the whole class is 59.2 kg and the average weight of the girls is 55 kg. What is the average weight of the boys?

A. 60 kg B. 62 kg C. 61 kg D. 63 kg

576. In how many years does a sum of Rs. 5000 yield a simple interest of Rs. 16500 at 15% p.a.?

a. 22 b. 24 c. 25 d. 23

577. Sum of rupees 3200 is compounded annually at the rate of 10 paisa per rupee per annum. Find the compound interest payable after 2 years.

a. 200 b. 842 c. 672 d. 832

578. What sum of money will amount to rupees 1124.76 in 3 years, if the rate of interest is 5% for the first year, 4% for the second year and 3% for the third year?

a. 1500 b. 1200 c. 1000 d. 1900

579. Riya saves an amount of 500 every year and then lent that amount at an interest of 10 percent compounded annually. Find the amount after 3 years.

a. 1820.5 b. 1840.5 c. 1920.5 d. 1940.5

580. Arya borrows rupees 6000 from a bank at SI. After 4 years she paid Rs 2500 to the bank and at the end of 5 years from the date of borrowing he paid Rs 4560 to settle the account. Find the rate of interest (approx)

a. 3.25% b. 3.50% c. 3.85% d. 4%

581. Ajay lent Rs.8800 to be divided between his two sons aged 11 years and 13 years such that both of them would get an equal amount when lent at the rate of 10% SI when they attain 18 years of age. What is the share of elder in Rs.8800?

a. 4125 b. 4325 c. 4475 d. 4675

582. SBI lent Rs. 10,000 to Deepak @7% SI for 10 years. Meanwhile, the government implemented a scheme due to which interest rate reduced by 2%. By this Deepak paid Rs.16,000 in total. Then after how many years after Deepak took the loan, the government introduced the scheme?

a. 3 Years b. 4 Years c. 5 years d. 6 years

583. Suresh invested one half of his savings in a bond that paid simple interest for 2 years and received Rs.550 as interest. He invested the remaining in a bond that paid compound interest, interest being compounded annually, for the same 2 years at the same rate of interest and received Rs.605 as interest. Find what was the value of his total savings before investing in these two bonds?

a. Rs 2750 b. Rs 2755 c. Rs 2885 d. Rs 2550

584. The difference between S.I and C.I on certain of money for 3 years at 10% per annum is Rs. 248. Find the sum?

a) 2000 b) 8000 c) 16000 d. 4000

585. The simple interest on ₹4000 for 2 years at 5% per annum is:

a) ₹200 b) ₹300 c) ₹400 d) ₹500

586. The simple interest on a sum of ₹ 1,000 for 2 years at 5% p.a. is invested at compound interest for 4 years at the same interest rate. What is the compound interest on the simple interest?

a. ₹121.55 b. ₹25 c. ₹125 4. ₹21.55

587. P1, P2, P3 are invested at 4%, 6%, 8% respectively such that the Simple Interests from all the three at the end of the year are equal. If the sum of three investments is Rs.2600, then find the values of P1, P2 and P3 respectively.

a. Rs. 1200, Rs. 600, Rs. 800 b. Rs. 1100, Rs. 800, Rs. 700

c. Rs. 1000, Rs. 900, Rs. 700 d. Rs. 1200, Rs. 800, Rs. 600

588. If the difference between CI for 3rd years and 2nd years is Rs.420 on a certain sum of money at the rate of 16 2/3 % for 3 years, find the principal.

a. Rs. 12000 b. Rs. 12960 c. Rs. 13000 d. Rs. 15000

589. The simple interest for the first 2 year is 6% next 2 years is 7% and for any number of years exceeding 4 years is 8%. Find the total interest on a principal 'P' at the end of 7 years.

a. P/2 b. P c. 3P/2 d. 2P

590. A sum of money at 8% Simple Interest was placed in a deposit for 7 years. The matured the amount was then invested in a scheme offering 10% Compound Interest compounded annually, thereby procuring an interest of Rs.1638 in 2 years. What was the original sum?

a. Rs. 5000 b. Rs. 8000 c. Rs. 6200 d. Rs. 7500

591. A girl has Rs.10800 and wanted to invest, she lend that money to someone for 2 years and 146 days at the rate of 16 2/3 % compounded annually.

Then, find the total compound interest.

a. Rs. 4880 b. Rs. 5980 c. Rs. 4720 d. Rs. 4900

592. Vivek borrowed a certain amount from the bank for 1 year at 30% CI interest being calculated every 4 months. If the rate of interest was 30% SI, then how much more time Vivek will take to pay his debt completely provided he paid same amount of interest?

a. 1.36 months b. 2.46 months c. 1.24 months d. 2.18 months

593. What will be the difference between the compound interest and simple interest on a sum of Rs. 100 at 10% per annum for 2 years?

a. Rs. 2 b. Rs. 1.50 c. Rs. 1 d. Rs. 0.50

594. If the difference of compound interest and simple interest on a sum for 2 years is Rs. 40 at the different rates of 12 ½ % for 1st year and 10% for 2nd year. Find the compound interest of 2nd year.

a. Rs. 400 b. Rs. 500 c. Rs. 360 d. Rs. 300

595. The amount of Rs. 8,000 is given at an annual rate of 8% on ordinary interest. If the amount was withdrawn after 5 years and half of the total amount was invested in the stock market, then tell the amount remaining (in rupees)

a. 5,600 b. 5,300 c. 5,500 d. 5,400

596. £1475 was invested for 5 years @ 4% simple interest per annum. The interest accrued would be £ _____?

a. 295 b. 442.5 c. 590 d. 147.5

597. If the simple interest on a certain sum for 1.5 years at 8% p.a. is Rs. 360. Find the compound interest on the same sum for the same rate of interest but double the time?

a. Rs. 778 b. Rs. 778.13 c. Rs. 779 d. Rs. 779.13

598. Ratio of the principal to simple interest is 4: 1. If rate of interest and time is equal then find the number of years?

a. 5 years b. 8 years c. 10 years d. 2 years

599. The repayment of a loan after 6 years at rate of 24% Simple Interest is Rs. 73200. What is the amount borrowed?

a. Rs. 42000 b. Rs. 30800 c. Rs. 45000 d. Rs. 30000

600. What will be the annual payment on a debt of Rs. 660 in 3 annual equal installments at the rate of 10 % per annum on S.I.?

a. 275 b. 250 c. 225 d. 200

601. If a loan grew 3 times in 6 years at Simple Interest, then how much time will it take to grow 8 times?

a. 15 years b. 22 years c. 20 years d. 21 years

602. Rs. 16500 is split into two fixed deposits for 2 years at 10% and 12% Simple Interest. If the total interest received from the deposits is Rs. 3620, how much was invested in the 12% scheme?

a. Rs.8500 b. Rs.10500 c. Rs.8000 d. Rs.10000

603. What is the difference between simple interest and compound interest on Rs. 4000 at the end of a year if annual rate of simple interest is 20% per annum and annual rate of compound interest is 30% per annum, interest is being compounded in every four months?

a. Rs. 636 b. Rs. 524 c. Rs. 734 d. Rs. 428

604. A man borrowed Rs. 5000 from a moneylender at 30% per annum. He pays back Rs. 2000 at the end of each year. Calculate how much amount he will pay at the end of 4 year.

a. 3803.5 b. 3906.5 c. 4005.5 d. 4102.5

605. In how many years will the amount of Rs. 1200 double itself under simple interest system of 4% p.a?

a. 19.33 b. 25 c. 50 d. 17.67

606. How many kg of variety 1 rice costing Rs. 52/kg should mixed with 25 kg of variety 2 rice costing Rs. 58 per kg, so that he makes a profit of 25% on selling the mixture at Rs. 67.5/kg?

a)40 kg b)60 kg c)50 kg d)70 kg

607. The mixture of 350 litres contains milk and water in the ratio of 4 : 3. How much quantity of water should be added to the mixture to get 40 % milk in it?

a)80 liters b)150 liters c)100 liters d)120 liters

608. A container contains 156 litres mixture of milk and water in the ratio 7: 6. The milkman sold 52 litres of the mixture and added 64 litres of another mixture of milk and water in the ratio 5: 3 into it. Find the difference between amount of milk and amount of water in the final mixture.

a)20 litres b)24 litres c)30 litres d)36 litres

609. Vessel A contains the mixture of milk and water in the ratio of 4:1 and the vessel B contains the mixture of milk and water in the ratio of 3:4. If both vessels mixtures are mixed, what is the ratio of the milk and water in the final mixture?

a)37:23 b)41:25 c)43:27 d)45:29

610. Vessel contains 60 liters milk. If x liters of milk is taken out and replaced by water, this process is repeated two more time and then the quantity of the water in the vessel is 29.28 liters, find the value of x?

a)10 liters b)12 liters c)15 liters d)18 liters

611. In three mixtures, the water and spirit is in the ratio of 2: 3, 1: 3 and 2: 5 respectively. If all three mixtures are mixed in the ratio of 1: 3: 2 respectively, then what will be the ratio of water and spirit in the resulting mixture?

a)135:537 b)251:632 c)187:512 d)241:599

612. A vessel contains milk and water, in which 30% is water. 20 litres of mixture was taken out and replaced by water and the ratio becomes 77: 53. Find the initial quantity of milk in the vessel?

a)91 litres b)90 litres c)84 litres d)105 litres

613. The vessel A contains the mixture of milk and water in the ratio of 3:2 and the vessel B contains the mixture of water and milk in the ratio of 1:2. If x liters of the mixture taken out from vessel A and is added to vessel B, then the ratio of the milk and water in vessel B becomes 11:7, then find the value of x?

a)10 liters b)18 liters c)12 liters d)Cannot be determined

614. A container contains milk of 80 litres. 12 litres of mixture is taken out and replaced with water. This process was repeated two more times. Find the amount of milk in the final mixture.

a)49.13 litres b)43.91 litres c)49.31 litres d)48.13 litres

615. A vessel contains 60 liters of the mixture of milk and water in the ratio of 2: 1. If 24 liters of the mixture is taken out and replaced by water, then the quantity of the milk in the final mixture is approximately what percent of the quantity of the water in the final mixture?

a)33.33% b)44.44% c)66.66% d)77.77%

616. A milkman has 40 liters mixture of milk and water in the ratio of 5:3. If he sold 16 liters of mixture and then 12 liters of milk added to the mixture. Again he sold 20 liters of mixture and then he added 8 liters of milk to the mixture. The final quantity of the water is what percent of the final quantity of the milk?

a)10% b)15% c)20% d)25%

617. Vessel A contains the mixture of Petrol and Diesel in the ratio of 3: 2, vessel B contains the mixture of Petrol and Kerosene in the ratio of 1: 2 and Vessel C contains mixture of Kerosene and Diesel in the ratio of 2: 3. If all the vessels are mixed in the ratio of 4: 3: 2, then find the respective ratio of Petrol, Diesel and Kerosene in the final mixture?

a)46: 58: 31 b)56: 63: 32 c)67: 72: 41 d)None of these

618. A Jar contains 80 liters mixture of milk and water and the quantity of the water is 30% of the total mixture. If X liters of mixture is taken out and replaced by water and then again the same quantity of the mixture is taken out and replaced by water. If final quantity of the milk is 31.5 liters, then find the value of x?

a)20 liters b)28 liters c)30 liters d)40 liters

619. How many kilograms of rice of Rs 6.4/kg should be mixed with 10 kg of rice of Rs 4.8/kg, in such that by selling the mixture at 20 % profit, which is Rs. 1.12 more than the average price per kg of both the varieties of rice

a)12 kg b)15 kg c)10 kg d)11 kg

620. The vessel A contains the ratio of the milk and water in the ratio of 8:5 and the vessel B contains 60 liters mixture of milk and water in the ratio of 7:5. If vessel A and B mixture mixed, then the ratio of the milk and water becomes 3:2, what is the initial quantity of the milk in vessel A?

a)32 liters b)24 liters c)40 liters d)48 liters

621. A vessel has certain quantity of milk and then 8 liters of milk is taken out and replaced with water. Now 10 liters of mixture taken out and replace with water and again 12 liters of the mixture is taken out and replaced with water. If the initial quantity of the milk in the vessel is 80 liters, then what is the final quantity of the milk?

a)53.55 liters b)54.78 liters c)55.89 liters d)56.19 liters

622. Ratio of the milk to water in vessel A to B is 3:2 and 5:6 respectively and the quantity of the milk in vessel B is 5 liters less than the quantity of the water in vessel B. If vessel A and Vessel B mixtures are mixed, then the ratio of milk to water becomes 11:10, then what is the initial quantity of vessel A?

a)60 liters -b)50 liters c)40 liters d)30 liters

623. A container contains x litres of pure milk which costs Rs. 20 per litre. From that container 50% is taken out and water is added. The mixture in this container is poured into another container which contains same quantity with milk and water in the ratio of 3: 1. Find the price at which this mixture to be sold to make 10% profit

a)12.5 per litre b)13.75 per litre c)11.25 per litre d)15.125 per litre

624. A vessel contains a mixture of milk and orange juice in the ratio of x: 3. When 10 litres of milk is added to the mixture then the ratio of milk to orange juice becomes 5: 3 and when 20 litres of milk is added then the ratio of milk to orange juice becomes 7: 4. Find the initial quantity of orange juice in the mixture.

a)125 litres b)110 litres c)120 litres d)90 litres

625. The cost price of milk in vessel A is Rs.66 per liter and the cost price of milk in vessel B is Rs.51. If milk in vessel A and B are mixed, then the shopkeeper sold 37.5 liters of this mixture at the cost price of milk in vessel A while he gets the profit of 10%. If he sold the same mixture at the cost price of milk in vessel B, then what is the percentage of loss or profit earned by shopkeeper?

a)8% profit b)8% loss c)15% loss d)15% profit

626. A shopkeeper deals in milk and 45 litre mixture is to be distributed in Milk & Water in the ratio of 4 : 1. If 4 litre milk & 3 litre water will be added in the mixture then what will be the new ratio of water and milk?

a)5 : 6 b)3 : 10 c)4 : 5 d)7 : 8

627. 48 litre of Glycerin is mixed with 144 litre Rose water. D litre of total mixture is taken out and 32 litre Glycerin and 48 litre Rose water are added in the mixture. The final mixture contains 30% Glycerin, find the quantity of the mixture that is taken out.

a)24 litre b)32 litre c)40 litre d)20 litre

628. In a mixture, the ratio of the alchohol and water is 6 : 5. When 22 litre mixture are replaced by water, the ratio becomes 9 : 13. Find the quantity of water after replacement.

a)62 litre b)50 litre c)40 litre d)52 litre

629. A solution of 'THANDA SHARBAT' has 15% sugar. Another solution has 5% sugar. How many liters' of the second solution must be added to the 20L of first solution to make a solution of 10 % sugar?

a)10 L b)5 L c)15 L d)20 L

630. Copper and Zinc are in the ratio 2 : 3 in 200 gms of an alloy. The quantity (in grams) of copper to be added to it to make the ratio 3 : 2 is:

a)150gm b)100gm c)120gm d)125gm

631. There are three bottles of mixture of syrup and water of ratios 2 : 3, 3 : 4 and 7 : 5, 10 litres of the first and 21 litres of the second bottles are taken. How much quantity from third bottle is to be taken so that final mixture from three bottles will be ratios 1 : 1.

a)25 litres b)20 litres c)35 litres d)30 litres

632. Solution A contains 10% acid and Solution B contains 30% acid. In what ratio should solution A be mixed with Solution B to obtain a mixture with 25% acid?

a)1 : 2 b)3 : 1 c)1 : 3 d)2 : 1

633. In what ratio should coffee powder costing Rs. 2500 per kg be mixed with coffee powder costing Rs. 1500 per kg so that the cost of the mixture is Rs. 2250 per kg?

a)1 : 4 b)4 : 1 c)3 : 1 d)1 : 3

634. A beaker contains acid and water in the ratio 1 : x When 300 ml of the mixture and 50 ml of water are mixed, the ratio of acid and water becomes 2 : 5. What is the value of x?

a)2 b)1 c)3 d)4

635. A mixture is composed of 11 parts of pure milk and 2 parts of water. If 35 litres of water was added to the mixture, the new mixture will contain twice as much pure milk as water. How many litres of pure milk does the original mixture contain?

a)110 b)55 c)220 d)70

636.A can contains a mixture of two liquids A and B in the ratio 7:5. When 9 liters of mixture are drawn off and the can is filled with liquid B, the ratio of A and B becomes 7:9. How many liters of liquid A was contained by the can initially?

A) 10 liters B) 20 liters C) 21 liters D) 25 liters

637.Three glasses of capacities 2 liters, 5 liters, and 9 liters contain mixtures of milk and water with milk concentrations of 90%, 80%, and 70% respectively. If the contents of all

three glasses are emptied into a single large vessel, what is the milk concentration in the final mixture?

A) 71.42% B) 73.50% C) 75.625% D) 78.25%

638. A merchant has 1000 kg of sugar, part of which he sells at 8% profit and the rest at 18% profit. He gains 14% on the whole transaction. Find the quantity of sugar sold at an 18% profit.

A) 400 kg B) 500 kg C) 600 kg D) 650 kg

639. mixture at the cost price of pure milk. What is the ratio of water to milk in the mixture?

A) 1:2 B) 1:4 C) 1:5 D) 4:5

640. A container initially has 80 liters of pure milk. From this container, 8 liters of milk is taken out and replaced by water. This process is repeated two more times. How much milk is now contained in the container?

A) 48.20 liters B) 51.12 liters C) 54.40 liters D) 58.32 liters

641.Two vessels A and B contain spirit and water mixed in the ratio 5:2 and 7:6 respectively. In what ratio must these mixtures be mixed to obtain a new mixture in vessel C containing spirit and water in the ratio 8:5?

A) 4:3 B) 5:9 C) 7:9 D) 8:11

642.Fresh fruit contains 68% water and dry fruit contains 20% water. How much dry fruit can be obtained from 100 kg of fresh fruits?

A) 20 kg B) 32 kg C) 40 kg D) 52 kg

643.A man travels a total distance of 80 km in 7 hours. He travels partly on foot at a speed of 8 km/hr and partly on a bicycle at 16 km/hr. Find the distance he traveled on foot.

A) 24 km B) 32 km C) 44 km D) 48 km

644. In what ratio must a grocer mix two varieties of tea worth Rs. 60 per kg and Rs. 65 per kg so that by selling the blended mixture at Rs. 68.20 per kg, he gains a profit of 10%?

A) 1:2 B) 3:2 C) 3:4 D) 4:5

645.From a cask containing 40 liters of milk, 8 liters are drawn out and the cask is filled up with water. If the same process is repeated a second, and then a third time, what will be the proportion of milk to water in the resulting mixture?

A) 27:37 B) 55:73 C) 64:61 D) 81:44

646. A zoo has rabbits and pigeons. If heads are counted, there are 200 in total. If legs are counted, there are 580. How many pigeons are there in the zoo?

A) 90 B) 100 C) 110 D) 120

647. A shopkeeper blends three varieties of tea costing Rs. 18, Rs. 24, and Rs. 30 per kg. In what ratio should he mix them so that the resulting mixture costs exactly Rs. 25 per kg?

A) 1:2:3 B) 1:2:5 C) 1:3:2 D) 2:3:1

648. A beaker contains pure alcohol. 20% of the alcohol is replaced by water. Then, 20% of the new mixture is replaced by water. Finally, 20% of the resulting mixture is replaced by water. What is the percentage of pure alcohol left in the beaker?

A) 40.8% B) 48.0% C) 50.0% D) 51.2%

649. A container contains 50 liters of milk. A certain quantity of milk is taken out and replaced by water. This process is repeated once more. Now the container has exactly 32 liters of milk. How much quantity of milk was taken out each time?

A) 8 liters B) 10 liters C) 12 liters D) 15 liters

650. Alloy A contains copper and zinc in the ratio 4:3. Alloy B contains copper and zinc in the ratio 5:2. Alloys A and B are melted in the ratio 1:2 to form Alloy C. Find the ratio of copper and zinc in Alloy C.

A) 1:2 B) 3:2 C) 2:1 D) 5:4

651.The population of a town was 8000. In one year, the male population increased by 10% and the female population increased by 8%, resulting in a total population increase of 9%. What was the initial number of males in the town?

A) 3000 B) 4000 C) 4500 D) 5000

652. A 60-liter mixture of milk and water contains 10% water. How many liters of water must be added to make the water content 20% in the new mixture?

A) 5.5 liters B) 6.0 liters C) 7.0 liters D) 7.5 liters

653. A dishonest grocer professes to sell pure milk at its cost price, but he mixes it with adulterated fat and thereby gains 33.33% profit. Assuming the fat costs him nothing, find the percentage of adulterated fat in the final mixture.

A) 16.66% B) 20% C) 25% D) 33.33%

654. A sum of Rs. 15,500 was lent partly at 5% and partly at 8% per annum simple interest. The total interest received after 3 years was Rs. 3,000. Find the ratio of the money lent at 5% to that lent at 8%.

A) 13:15 B) 15:16 C) 16:15 D) 17:14

655. Three equal glasses are filled with a mixture of milk and water. The ratio of milk to water in each glass is 1:2, 2:3, and 3:4 respectively. If the contents of all three are poured into a single large vessel, what will be the ratio of milk to water?

A) 117:194 B) 122:193 C) 125:197 D) 130:189

656. An ore contains 20% of an alloy that has 85% iron. The remaining 80% of the ore does not contain any iron. How much ore is required to obtain exactly 60 kg of pure iron?

A) 300 kg B) 320 kg C) 352.94 kg D) 400 kg

657. A vessel contains a mixture of milk and water in the ratio 3:1. What fraction of the mixture must be drawn off and replaced with water so that the mixture becomes half milk and half water?

A) ¼ B) 1/3 C) 2/5 D) ½

658. A bag contains 120 coins composed of 50 paise and 25 paise denominations. If the total value of the coins in the bag is Rs. 45, find the number of 25 paise coins.

A) 40 B) 50 C) 60 D) 70

659. A barrel contains 60 liters of wine. Initially, 10 liters of wine is taken out and replaced with water. Next, 15 liters of the mixture is taken out and replaced with water. Finally, 12 liters of the mixture is taken out and replaced with water. Find the final quantity of wine in the barrel.

A) 24 liters B) 28 liters C) 30 liters D) 36 liters

660. The cost of Type A rice is Rs. 15 per kg and Type B is Rs. 20 per kg. If both are mixed in the ratio 2:3, the price of the mixed variety is Rs. X per kg. If they are mixed in the ratio 3:2, the price is Rs. Y per kg. Find the absolute difference between X and Y.

A) 0.5 B) 1.0 C) 1.5 D) 2.0

661. A 200-gram sugar solution contains 40% sugar. How many grams of sugar should be added to the solution to make it 50% sugar by weight?

A) 20 grams B) 30 grams C) 40 grams D) 50 grams

662. In an examination, a student answered 120 questions. He got 80% correct in the first 60 questions. What percentage of the remaining questions must he answer correctly to achieve an overall score of 75% correct in the entire exam?

A) 60% B) 65% C) 70% D) 75%

663. A chemist has 10 liters of a solution that is 10% nitric acid by volume. He wants to dilute the solution to exactly 4% strength by adding pure water. How many liters of water must be added?

A) 10 liters B) 12 liters C) 15 liters D) 18 liters

664. A merchant bought a total of 80 kg of rice across 3 varieties costing Rs. 50, Rs. 60, and Rs. 80 per kg. He bought equal quantities of the Rs. 50 and Rs. 80 varieties. If the total cost incurred was Rs. 5000, how many kilograms of the Rs. 60 variety did he buy?

A) 20 kg B) 30 kg C) 40 kg D) 50 kg

665. A container holds 100 liters of pure milk. A milkman sells 10 liters of milk at cost price and immediately replaces it with water. He then sells 20 liters of the mixture at cost price and replaces it with water. Finally, he sells 25 liters of the new mixture at cost price and replaces it with water. If he finally sells the remaining 100 liters of mixture at the cost price of pure milk, what is his overall profit percentage?

A) 45% B) 50% C) 55% D) 60%

Directions: In the questions below some statements are given followed by three conclusions I, II and III. You have to take the given statements to be true even if they seem to be at variance with commonly known facts. Read all the conclusions and then decide which of the given conclusion definitely follows from the given statements, disregarding commonly known facts.

666. No Boxes are Shelves

Only Shelves are Cartons

Some Shelves are Table

Conclusions:

I. Some Table can be Boxes

II. Some Boxes are not Cartons

III. All Table being Cartons is a possibility

a)Only conclusion III follows

b)Only conclusion II follows

c)Only conclusion II and conclusion III follow

d)Only conclusion I and conclusion II follow

667. All Pasta are Maggi

Only Maggi are Momo

No Fast food are Maggi

Conclusions:

I. Some Pasta being Momo is a possibility

II. No Pasta is Fast food

III. No Momo are Fast food

a)Only conclusion III follow

b)Only conclusion II follows

c)Only conclusion II and conclusion III follow

d)Only conclusion I and conclusion III follow

668. Statements: Only a few home is picnic. No picnic is mystery. All mystery is real.

Conclusions:

I: Some mystery are not picnic.

II. All home being picnic is a possibility

a)If only conclusion I follows

b)If only conclusion II follows

c)If either conclusion I or II follows

d)If neither conclusion I nor II follows

669. Statements: Only a few strong is tough. Only a few tough is dark.

Conclusions:

I: Some strong is not dark.

II. No tough is strong.

a)If only conclusion I follows

b)If only conclusion II follows

c)If either conclusion I or II follows

d)If neither conclusion I nor II follows

670. Statements: No network is dull. Only a few dull is fast. All fast is memory.

Conclusions:

I. Some memory are definitely not network.

II. Some dull are not network.

a)If only conclusion I follows

b)If only conclusion II follows

c)If either conclusion I or II follows

d)If both conclusions I and II follow.

671. Statements: All tennis is football. All football is basketball. No basketball is cricket.

Conclusions:

I. No football is cricket.

II. All tennis is basketball.

a)If only conclusion I follows

b)If only conclusion II follows

c)If either conclusion I or II follows

d)If both conclusions I and II follow.

672. Statements:

Some apples are orange.

No oranges are fruit

Only a few fruits are bananas

Conclusion:

I. Some apples are fruit

II. Some fruits are bananas

a)Only 1 follows b)Only 2 follows

c)Either 1 or 2 follows d)Both 1 and 2 follows

673. Statements:

Some red are blue

No red are black

All black are pink

Conclusions:

I. Some pink are black

II. Some red are pink

a)Only 1 follows b)Only 2 follows
c)Both 1 and 2 follows d)Either 1 or 2 follows

674. Statements:

No dogs are cats.

Only a few cats are wild.

All wild are animal

Conclusions:

I. All cats are animal

II. Some cats are not animal

a)Only 1 follows
b)Only 2 follows
c)Both 1 and 2 follows
d)Either 1 or 2 follows

675. Statements:

I. Some chairs are tables.

II. Only a few tables are bed

III. No bed is furniture

Conclusions:

I. Some chairs are bed

II. Some furniture are tables.

a)Only conclusion I follows

b)Only conclusion II follows

c)Both conclusion I and II follows

d)Neither conclusion I nor II follows

676. Statements:

I. Some mobiles are calculators

II. Some calculators are pens

III. Only a few pens are scales

Conclusions:

I. Some mobiles being pens is a possibility

II. Some pens are not scales.

a)Only conclusion I follows

b)Only conclusion II follows

c)Neither conclusion I nor II follows

d)Both conclusion I and II follows

677. Statements:

Some fan is AC.

Only a few AC is cooler.

Conclusions:

I. Some fan is cooler.

II. No fan is cooler.

a) Only conclusion I follow

b) Only conclusion II follow

c) Both conclusions I and II follow

d) Neither conclusion I nor II follows

678. Statements:

I. Some gases are liquids

II. Only a few gases are water

Conclusions:

I. Some gases are water

II. Some gases are not water

a) Only conclusion I follows

b) Only conclusion II follows

c) Either conclusion I or II follows

d) Neither conclusion I or II follows

679. Statements: All Toy is Bottle.

A little Toy are Machine.

Conclusions:

I. No Toy is Bottle.

II. Some Machine are Bottle.

a) Only I follow

b) Only II follow

c) Either I or II follows

d) Neither I nor II follows

680. Statements:

1. No apple is a plum.

2. All plums are oranges.

3. All oranges are mangoes.

Conclusions:

I. All plums are mangoes.

II. At least some mangoes are oranges.

a) Neither I nor II follows b) Only I follows

c) Either I or II follows d) Both I and II follow

681. Statements:

1. All animals are mammals.

2. No mammal is reptile.

3. All reptiles are amphibians.

Conclusions:

I. All animals are amphibians.

II. Some amphibians are mammals

a) Neither I nor II follows b) Only I follows

c) Either I or II follows d) Both I and II follow

682. Statement:

1. Some schools are classes.

2. Some classes are teachers.

3. All teachers are students.

Conclusions:

I. Some students are classes.

II. All schools being students is a possibility.

a) Neither I nor II follows b) Only I follows

c) Either I or II follows d) Only II follows

683. Statements:

1. Some milk are curd.

2. Some curd are butter-milk.

3. All butter-milk are butter.

4. No butter is a ghee.

Conclusions:

I. No butter-milk is ghee.

II. Some butter are curd.

III. Some curd are not ghee.

a) If only conclusion I follows b) If only conclusion II follows

c) If either conclusion I or II follows d) If only conclusion III follows

684. Statements:

1. All letters are envelopes.

2. No envelope is post office.

3. Some post offices are postmen.

Conclusions:

I. Some postmen are letters.

II. No postman is letter.

a) If only conclusion I follows b) If only conclusion II follows

c) If either conclusion I or II follows d) If both conclusion I and II follow

685. Statements:

1. No animal is a rat.

2. Some cows are animals.

3. All bears are rats.

Conclusions:

I. Some animals are cows.

II. No bear is an animal.

a) If only conclusion I follows b) If only conclusion II follows

c) If either conclusion I or II follows d) If neither conclusion I nor II follows

686. Statements :

1. Some oranges are apples.

2. All lemons are apples.

3. No apple is guava.

Conclusions :

I. Some oranges are lemons.

II. All guavas being lemon is a possibility.

III. No orange is a lemon.

a) Only C3 follows b) Either C1 or C3 follows

c) Only C2 and C3 follow d) All follow

687. Statements :

1. A few mechanics are not plumbers.

2. All plumbers are qualified.

3. No qualified is skilled.

Conclusions :

I. No skilled is a plumber.

II. No mechanic is skilled.

III. Some plumbers are not mechanics.

a) Only C1 follows b) Either C1 or C2 follows

c) Only C2 and C3 follow d) All follow

688. Statements :

1. No cycle is tyre.

2. Not a single tyre is tube.

3. Every tube is puncture.

Conclusions :

I. Some punctures which are tubes are cycles as well.

II. No cycle is a tube.

III. Some punctures are not tyres.

a) Only C3 follows b) Either C1 or C2 follows

c) Only C2 and C3 follow d) All follow

689. Statements :

1. No panther is jaguar.

2. Not a single jaguar is puma.

3. Every puma is cheetah.

Conclusions :

I. Some cheetah which are puma are panther as well.

II. No panther is a puma.

III. Some cheetah are not jaguar.

a) Only C3 follows b) Either C1 or C2 follows

c) Only C2 and C3 follow d) All follow

690. Statements :

1. A few poets are not poetesses.

2. All poetesses are serious.

3. No serious is dilligent.

Conclusions :

I. No dilligent is a poetess.

II. No poet is dilligent.

III. Some poetesses are not poets.

a) Only C1 follows b) Either C1 or C2 follows

c) Only C2 and C3 follow d) All follow

691. Statements :

1. At least some Europeans are British.

2. Every European is an American.

3. No American is an African.

Conclusions :

I. All Americans being British is a possibility.

II. Some Europeans can be Africans as well.

III. No African is a British.

a) Only I follows b) I and III follow

c) I and II follow d) All I, II and III follow

692. Statements :

1. All phones are tools.

2. Some tools are letters.

3. All letters are stars.

Conclusions :

I. All phones being stars is a possibility.

II. At least some letters are phones.

a) if only conclusion I follows b) if only conclusion II follows

c) if both conclusion I and II follow d) if neither conclusion I nor II follows

693. Statements :

1. Some poles are pots.

2. All pots are plants.

3. Some plants are leaves.

Conclusions :

I. Some poles are plants.

II. All plants being leaves is a possibility

a) if only conclusion I follows b) if only conclusion II follows

c) if both conclusion I and II follow d) if neither conclusion I nor II follows

694. Statements:

1. Some SRKs are actors.

2. All actresses are actors.

3. No actor is musician.

Conclusions:

I. Some SRKs are actresses.

II. All musicians being actresses is a possibility.

III. No SRK is an actress.

IV. Some actors not being SRK is a possibility.

a) Only C2 follows b) Either C1 or C3 and C2 and C4 follow

c) Only C2 and C4 follow d) None of these

695. Statement:

1. No whale is shark.

2. Not a single shark is fish.

3. Every fish are deer.

Conclusions:

I. Some deer which are fish are whale as well.

II. No whale is a fish.

III. Some deer are not shark.

IV. No whale is a deer.

a) Only C3 follows b) Only C1, C2 and C3 follow

c) Only C2 and C4 follow d) All follow

(696 – 700)

Study the following table and answer the questions based on it.

Expenditures of a Company (in Lakh Rupees) per Annum Over the given Years.

Year	Item of Expenditure				
	Salary	Fuel and Transport	Bonus	Interest on Loans	Taxes
1998	288	98	3.00	23.4	83
1999	342	112	2.52	32.5	108
2000	324	101	3.84	41.6	74
2001	336	133	3.68	36.4	88
2002	420	142	3.96	49.4	98

696. What is the average amount of interest per year which the company had to pay during this period?

A. Rs. 32.43 lakhs B. Rs. 33.72 lakhs

C. Rs. 34.18 lakhs D. Rs. 36.66 lakhs

697. The total amount of bonus paid by the company during the given period is approximately what percent of the total amount of salary paid during this period?

A. 0.1% B. 0.5% C. 1% D. 1.25%

698. Total expenditure on all these items in 1998 was approximately what percent of the total expenditure in 2002?

A. 62% B. 66% C. 69% D. 71%

699. The total expenditure of the company over these items during the year 2000 is?

A. Rs. 544.44 lakhs B. Rs. 501.11 lakhs

C. Rs. 446.46 lakhs D. Rs. 478.87 lakhs

700. The ratio between the total expenditure on Taxes for all the years and the total expenditure on Fuel and Transport for all the years respectively is approximately?

A. 4:7 B. 10:13 C. 15:18 D. 5:8

(701 – 705)

Study the following table and answer the questions.

Number of Candidates Appeared and Qualified in a Competitive Examination from Different States Over the Years.

State	Year									
	1997		1998		1999		2000		2001	
	App.	Qual.	App.	Qual.	App.	Qual.	App.	Qual.	App.	Qual.
M	5200	720	8500	980	7400	850	6800	775	9500	1125
N	7500	840	9200	1050	8450	920	9200	980	8800	1020
P	6400	780	8800	1020	7800	890	8750	1010	9750	1250
Q	8100	950	9500	1240	8700	980	9700	1200	8950	995
R	7800	870	7600	940	9800	1350	7600	945	7990	885

701. Total number of candidates qualified from all the states together in 1997 is approximately what percentage of the total number of candidates qualified from all the states together in 1998?

A. 72% B. 77% C. 80% D. 83%

702. What is the average candidates who appeared from State Q during the given years?

A. 8700 B. 8760 C. 8990 D. 8920

703. In which of the given years the number of candidates appeared from State P has maximum percentage of qualified candidates?

A. 1997 B. 1998 C. 1999 D. 2001

704. What is the percentage of candidates qualified from State N for all the years together, over the candidates appeared from State N during all the years together?

A. 12.36% B. 12.16% C. 11.47% D. 11.15%

705. The percentage of total number of qualified candidates to the total number of appeared candidates among all the five states in 1999 is?

A. 11.49% B. 11.84 C. 12.21% D. 12.57%

(706 – 710)

Directions to Solve

The following table gives the percentage of marks obtained by seven students in six different subjects in an examination.

The Numbers in the Brackets give the Maximum Marks in Each Subject.

Student	Subject (Max. Marks)					
	Maths	Chemistry	Physics	Geography	History	Computer Science
	(150)	(130)	(120)	(100)	(60)	(40)
Ayush	90	50	90	60	70	80
Aman	100	80	80	40	80	70
Sajal	90	60	70	70	90	70
Rohit	80	65	80	80	60	60
Muskan	80	65	85	95	50	90
Tanvi	70	75	65	85	40	60
Tarun	65	35	50	77	80	80

706. What are the average marks obtained by all the seven students in Physics? (rounded off to two digit after decimal)

A. 77.26 B. 89.14 C. 91.37 D. 96.11

707. The number of students who obtained 60% and above marks in all subjects is?

A. 1 B. 2 C. 3 D. None

708. What was the aggregate of marks obtained by Sajal in all the six subjects?

A. 409 B. 419 C. 429 D. 449

709. In which subject is the overall percentage the best?

A. Maths B. Chemistry C. Physics D. History

710. What is the overall percentage of Tarun?

A. 52.5% B. 55% C. 60% D. 63%

(711 – 713)

The following pie charts exhibit the distribution of the overseas tourist traffic from India. The two charts shows the tourist distribution by country and the age profiles of the tourists respectively.

Distribution of Overseas Tourist Traffic from India.

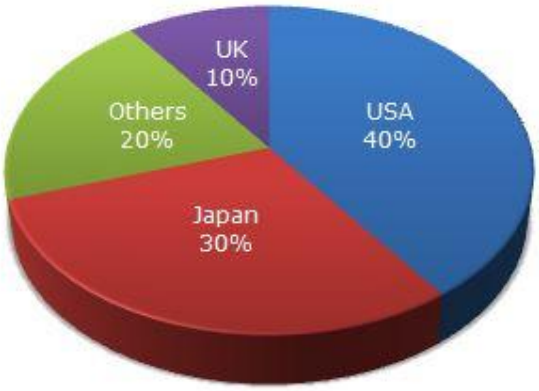

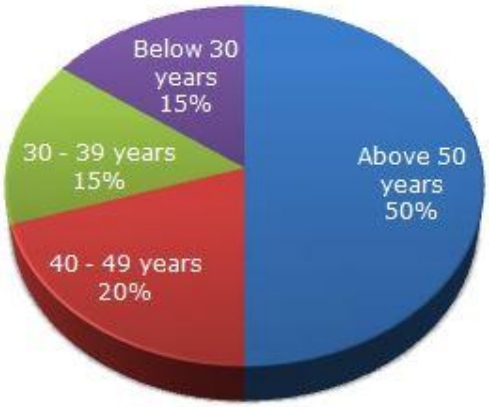

711. What percentage of Indian tourist went to either USA or UK ?

a) 40 % b) 50 % c) 60 % d) 70 %

712. The ratio of the number of Indian tourists that went to USA to the number of Indian tourists who were below 30 years of age is ?

a) 2:1 b) 8:3 c) 3:8 d) Cannot be determined

713. If amongst other countries, Switzerland accounted for 25% of the Indian tourist traffic, and it is known from official Swiss records that a total of 25 lakh Indian tourists had gone to Switzerland during the year, then find the number of 30-39 year old Indian tourists who went abroad in that year ?

a) 18.75 lakh b) 25 lakh c) 50 lakh d) 75 lakh

(714 – 716)

The following pie-chart shows the percentage distribution of the expenditure incurred in publishing a book. Study the pie-chart and the answer the questions based on it.

Various Expenditures (in percentage) Incurred in Publishing a Book

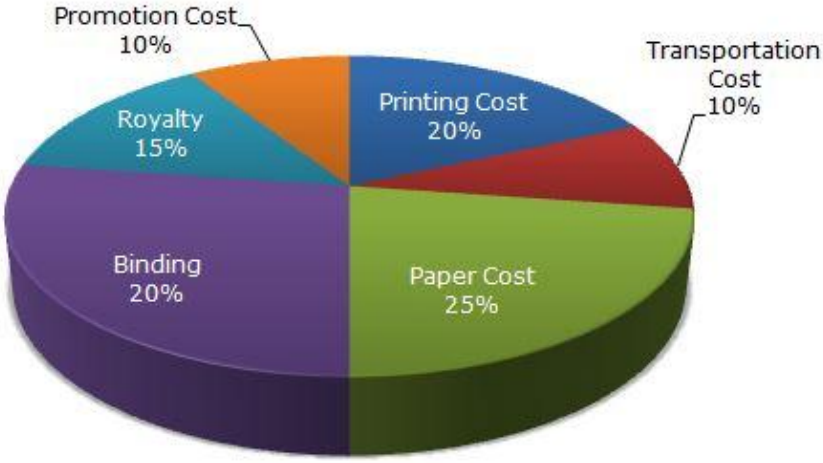

714. If for a certain quantity of books, the publisher has to pay Rs. 30,600 as printing cost, then what will be amount of royalty to be paid for these books?

a) Rs. 19,450 b) Rs. 21,200 c) Rs. 22,950 d) Rs. 26,150

715. The price of the book is marked 20% above the C.P. If the marked price of the book is Rs. 180, then what is the cost of the paper used in a single copy of the book?

a) Rs. 36 b) Rs. 37.50 c) Rs. 42 d) Rs. 44.25

716. Royalty on the book is less than the printing cost by:

a) 5% b) 3.5% c) 0% d) 25%

(717 – 720)

The following pie-chart shows the percentage distribution of the expenditure incurred in publishing a book. Study the pie-chart and the answer the questions based on it.

Various Expenditures (in percentage) Incurred in Publishing a Book

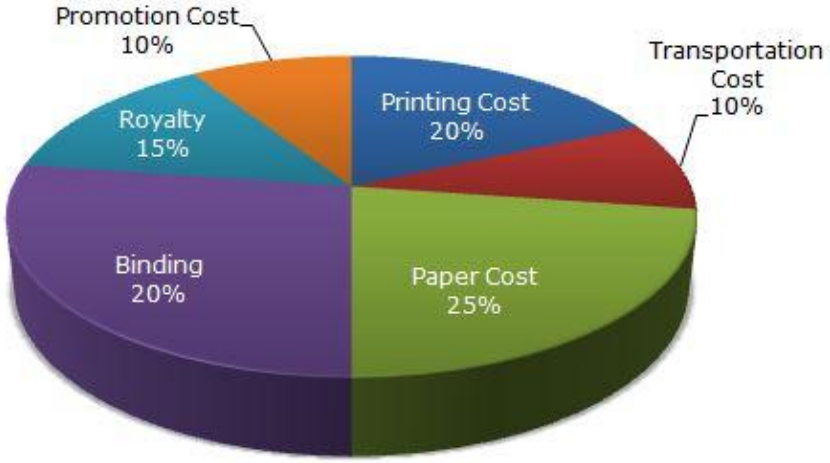

717. If the difference between the two expenditures are represented by 18° in the pie-chart, then these expenditures possibly are

a) Binding Cost and Promotion Cost

b) Paper Cost and Royalty

c) Binding Cost and Printing Cost

d) Paper Cost and Printing Cost

718. For an edition of 12,500 copies, the amount of Royalty paid by the publisher is Rs. 2,81,250. What should be the selling price of the book if the publisher desires a profit of 5%?

a) Rs. 152.50 b) Rs. 157.50 c) Rs. 162.50 d) Rs. 167.50

719. If for an edition of the book, the cost of paper is Rs. 56250, then find the promotion cost for this edition.

a) Rs. 20,000 b) Rs. 22,500 c) Rs. 25,500 d) Rs. 28,125

720. Which two expenditures together have central angle of 108°?

a) Binding Cost and Transportation Cost

b) Printing Cost and Paper Cost

c) Royalty and Promotion Cost

d) Binding Cost and Paper Cost

721. A sum of money becomes 3 times itself in 5 years at a certain rate of simple interest. In how many years will it become 9 times itself at the same rate?

A. 15 years B. 18 years C. 20 years D. 25 years

722. A person invested total of ₹25,000 in two parts. One part at 8% p.a. SI and the other at 12% p.a. SI. If the total annual interest is ₹2,440, find the sum invested at 12%.

A. ₹10,000 B. ₹11,000 C. ₹12,000 D. ₹14,000

723. What is the difference between the compound interest (compounded annually) and the simple interest on ₹12,500 for 2 years at 8% per annum?

A. ₹60 B. ₹80 C. ₹100 D. ₹120

724. If the compound interest on a certain sum for 2 years at 10% p.a. is ₹2,100, what would be the simple interest on the same sum at the same rate for the same period?

A. ₹1,800 B. ₹1,900 C. ₹2,000 D. ₹2,050

725. A sum of money at compound interest amounts to thrice itself in 3 years. In how many years will it be 9 times itself?

A. 6 years B. 9 years C. 12 years D. 27 years

726. A sum was put at simple interest at a certain rate for 3 years. Had it been put at 2% higher rate, it would have fetched ₹360 more. Find the sum.

A. ₹4,000 B. ₹5,000 C. ₹6,000 D. ₹9,000

727. Find the compound interest on ₹10,000 in 2 years at 4% per annum, the interest being compounded half-yearly.

A. ₹824.32 B. ₹816.00 C. ₹828.56 D. ₹830.12

728. The difference between CI and SI on a certain sum for 3 years at 10% per annum is ₹155. Find the principal.

A. ₹5,000 B. ₹4,500 C. ₹6,000 D. ₹5,500

729. A sum of ₹12,000 deposited at CI becomes double after 5 years. After 20 years, it will become:

A. ₹96,000 B. ₹1,20,000 C. ₹1,24,000 D. ₹1,92,000

730. At what rate percent per annum will a sum of ₹2,304 amount to ₹2,500 in 2 years at compound interest?

A. 4% B. 4.5% C. 5% D. 4 1/6%

731. A man borrows ₹4,000 and agrees to pay it back in two equal annual installments at 10% compound interest. Find the value of each installment.

A. ₹2,200 B. ₹2,304.76 C. ₹2,420 D. ₹2,500

732. A certain sum of money amounts to ₹6,655 in 3 years and ₹7,320.50 in 4 years at CI. Find the rate of interest.

A. 8% B. 10% C. 12% D. 5%

733. If the SI on a sum of money for 2 years at 5% p.a. is ₹50, what will be the CI on the same sum at the same rate and for the same time?

A. ₹50.50 B. ₹51.25 C. ₹52.00 D. ₹54.25

734. The effective annual rate of interest corresponding to a nominal rate of 6% per annum payable half-yearly is:

A. 6.06% B. 6.09% C. 6.12% D. 6.15%

735. A money-lender finds that due to a fall in the rate of interest from 13% to 12.5%, his yearly income diminishes by ₹104. What is his capital?

A. ₹16,000 B. ₹18,800 C. ₹20,800 D. ₹25,000

736. A sum of money doubles itself in 10 years at simple interest. What is the rate of interest?

A. 10% B. 12% C. 8% D. 15%

737. If a sum of ₹500 amounts to ₹700 in 4 years, what will it amount to if the rate of interest is increased by 2%?

A. ₹720 B. ₹740 C. ₹760 D. ₹800

738. A sum of money is borrowed and paid back in two annual installments of ₹882 each, allowing 5% compound interest. The sum borrowed was:

A. ₹1,620 B. ₹1,600 C. ₹1,640 D. ₹1,700

739. In how many years will a sum of ₹800 at 10% per annum compounded semi-annually become ₹926.10?

A. 1.5 years B. 2 years C. 2.5 years D. 3 years

740. A person divided ₹13,010 between his two sons aged 13 and 15 years in such a way that if their portions were invested at 4% p.a. compound interest, they shall receive equal amounts when they reach 20 years of age. Find the share of the younger son.

A. ₹6,500 B. ₹6,250 C. ₹6,760 D. ₹6,000

741. The simple interest on a certain sum for 8 months at 4% p.a. is ₹129 less than the simple interest on the same sum for 15 months at 5% p.a. The sum is:

A. ₹2,500 B. ₹3,600 C. ₹4,200 D. ₹4,800

742. A sum of money invested at CI amounts to ₹4,624 in 2 years and to ₹4,913 in 3 years. The sum is:

A. ₹4,000 B. ₹4,096 C. ₹4,260 D. ₹4,350

743. A took a loan from B at 8% SI and at the same time lent the same amount to C at 10% SI. If at the end of 3 years A's profit was ₹540, find the amount.

A. ₹8,000 B. ₹9,000 C. ₹10,000 D. ₹12,000

744. A sum of money becomes 13/5 of itself in 8 years at SI. What is the rate of interest?

A. 15% B. 20% C. 18% D. 25%

745. If the simple interest on a sum of money at 12% per annum for 2 years is ₹1,500, what is the compound interest on the same sum at the same rate for the same period?

A. ₹1,580 B. ₹1,540 C. ₹1,590 D. ₹1,600

746. A certain sum of money is invested at a certain rate of compound interest compounded annually. The interests for the second and third years are ₹2,420 and ₹2,662 respectively. The rate of interest is:

A. 10% B. 9% C. 11% D. 12%

747. Find the present worth of ₹9,261 due 3 years hence at 5% per annum compound interest.

A. ₹7,500 B. ₹8,000 C. ₹8,500 D. ₹9,000

748. The mathematically exact present worth perfectly and strictly corresponds to the base of ₹8,000. A sum of ₹10 is lent to be returned in 11 monthly installments of ₹1 each. Find the rate of SI.

A. 10% B. 11% C. 20% D. 21 9/11%

749. The population of a town increases by 5% annually. If the current population is 92,610, what was it 3 years ago?

A. 70,000 B. 80,000 C. 85,000 D. 75,000

750. A sum of money at SI amounts to ₹815 in 3 years and to ₹854 in 4 years. The sum is:

A. ₹698 B. ₹700 C. ₹650 D. ₹690

ANSWER KEY

1	d	51	d	101	b	151	d	201	c	251	b	301	b	351	c	401	a	451	d
2	b	52	c	102	c	152	d	202	a	252	b	302	c	352	b	402	a	452	b
3	b	53	a	103	c	153	a	203	c	253	d	303	b	353	b	403	a	453	c
4	b	54	a	104	c	154	a	204	b	254	b	304	c	354	c	404	a	454	d
5	b	55	c	105	a	155	d	205	c	255	a	305	c	355	b	405	a	455	c
6	a	56	c	106	b	156	a	206	d	256	b	306	d	356	a	406	a	456	d
7	a	57	c	107	b	157	c	207	b	257	c	307	b	357	b	407	a	457	b
8	d	58	a	108	b	158	b	208	c	258	c	308	a	358	b	408	a	458	b
9	b	59	d	109	a	159	a	209	c	259	d	309	a	359	b	409	a	459	b
10	a	60	c	110	d	160	c	210	d	260	c	310	d	360	b	410	a	460	b
11	a	61	a	111	c	161	c	211	b	261	b	311	b	361	b	411	c	461	b
12	a	62	c	112	c	162	a	212	a	262	d	312	d	362	b	412	a	462	b
13	a	63	c	113	a	163	a	213	d	263	d	313	b	363	b	413	c	463	b
14	b	64	b	114	d	164	a	214	b	264	a	314	d	364	b	414	d	464	b
15	c	65	b	115	c	165	d	215	b	265	b	315	b	365	b	415	b	465	c
16	d	66	c	116	a	166	a	216	a	266	c	316	b	366	c	416	b	466	c
17	b	67	b	117	a	167	a	217	b	267	a	317	d	367	c	417	c	467	a
18	a	68	a	118	d	168	a	218	d	268	b	318	c	368	b	418	b	468	b
19	c	69	d	119	c	169	a	219	b	269	b	319	d	369	b	419	c	469	b
20	c	70	d	120	b	170	c	220	b	270	d	320	d	370	c	420	d	470	b

21	c	71	c	121	a	171	a	221	c	271	d	321	d	371	d	421	b	471	b
22	a	72	a	122	c	172	b	222	c	272	c	322	a	372	c	422	b	472	b
23	c	73	c	123	a	173	a	223	b	273	a	323	a	373	b	423	b	473	c
24	a	74	b	124	a	174	a	224	c	274	d	324	c	374	a	424	a	474	b
25	d	75	b	125	d	175	c	225	a	275	b	325	a	375	d	425	c	475	b
26	a	76	a	126	a	176	b	226	a	276	a	326	c	376	a	426	c	476	c
27	b	77	c	127	a	177	b	227	b	277	c	327	c	377	a	427	a	477	c
28	b	78	c	128	b	178	a	228	d	278	b	328	d	378	d	428	d	478	b
29	c	79	c	129	b	179	a	229	b	279	c	329	c	379	d	429	d	479	b
30	c	80	b	130	d	180	b	230	a	280	c	330	d	380	b	430	b	480	b
31	a	81	a	131	a	181	b	231	a	281	b	331	b	381	b	431	d	481	b
32	c	82	b	132	d	182	b	232	b	282	b	332	d	382	d	432	d	482	b
33	d	83	a	133	b	183	b	233	b	283	b	333	d	383	c	433	d	483	b
34	b	84	d	134	a	184	b	234	a	284	c	334	b	384	d	434	a	484	c
35	a	85	d	135	b	185	b	235	a	285	b	335	b	385	b	435	c	485	c
36	d	86	b	136	c	186	b	236	b	286	a	336	a	386	b	436	b	486	a
37	a	87	c	137	c	187	a	237	b	287	a	337	d	387	b	437	d	487	d
38	d	88	a	138	c	188	a	238	b	288	b	338	b	388	b	438	d	488	b
39	c	89	b	139	b	189	a	239	a	289	a	339	a	389	d	439	c	489	a
40	a	90	a	140	a	190	c	240	d	290	b	340	b	390	b	440	b	490	c
41	c	91	a	141	d	191	d	241	a	291	b	341	d	391	b	441	c	491	a

42	c	92	a	142	a	192	b	242	b	292	c	342	a	392	d	442	d	492	c
43	d	93	d	143	b	193	c	243	c	293	b	343	b	393	d	443	d	493	d
44	c	94	c	144	c	194	d	244	b	294	b	344	b	394	d	444	d	494	d
45	a	95	c	145	c	195	b	245	b	295	c	345	b	395	b	445	b	495	b
46	a	96	b	146	d	196	a	246	b	296	b	346	a	396	a	446	a	496	c
47	b	97	d	147	d	197	a	247	c	297	c	347	d	397	a	447	b	497	a
48	c	98	b	148	d	198	b	248	c	298	c	348	c	398	a	448	c	498	b
49	b	99	b	149	a	199	b	249	b	299	b	349	b	399	a	449	d	499	b
50	c	100	d	150		200	a	250	a	300	c	350	b	400	a	450	a	500	d

501	d	526	d	551	c	576	a	601	d	626	b	651	b	676	d	701	c	726	c
502	c	527	b	552	a	577	c	602	c	627	b	652	d	677	d	702	c	727	a
503	d	528	a	553	b	578	c	603	b	628	d	653	c	678	b	703	d	728	a
504	b	529	c	554	c	579	a	604	b	629	d	654	c	679	d	704	d	729	d
505	a	530	b	555	c	580	c	605	b	630	b	655	b	680	a	705	b	730	d
506	a	531	d	556	c	581	d	606	c	631	d	656	c	681	d	706	b	731	b
507	c	532	c	557	c	582	c	607	b	632	c	657	b	682	d	707	b	732	b
508	b	533	b	558	a	583	a	608	b	633	c	658	c	683	c	708	d	733	b
509	d	534	a	559	c	584	b	609	b	634	a	659	c	684	d	709	a	734	b
510	b	535	a	560	b	585	a	610	b	635	a	660	b	685	b	710	c	735	c
511	b	536	a	561	b	586	d	611	d	636	c	661	c	686	a	711	c	736	a
512	d	537	d	562	c	587	d	612	a	637	c	662	c	687	a	712	b	737	b
513	a	538	b	563	b	588	b	613	d	638	c	663	c	688	a	713	d	738	c
514	c	539	c	564	a	589	a	614	a	639	b	664	c	689	a	714	c	739	a
515	d	540	a	565	c	590	a	615	c	640	d	665	c	690	a	715	b	740	b

516	a	541	c	566	d	591	a	616	c	641	c	666	d	691	a	716	d	741	b
517	a	542	b	567	c	592	c	617	d	642	c	667	c	692	a	717	d	742	b
518	a	543	b	568	b	593	c	618	a	643	b	668	a	693	b	718	b	743	b
519	d	544	d	569	b	594	c	619	c	644	b	669	d	694	d	719	b	744	b
520	a	545	b	570	a	595	a	620	c	645	c	670	d	695	a	720	a	745	c
521	c	546	a	571	b	596	a	621	a	646	c	671	d	696	d	721	c	746	a
522	b	547	b	572	b	597	d	622	b	647	c	672	b	697	c	722	b	747	b
523	d	548	b	573	c	598	a	623	b	648	d	673	a	698	c	723	b	748	d
524	a	549	d	574	b	599	d	624	c	649	b	674	d	699	a	724	c	749	b
525	c	550	c	575	b	600	d	625	c	650	c	675	d	700	b	725	a	750	a